1 Tangent Spaces

Teacher's Note: Before we dive into the heavy formulas, let's build some intuition. Imagine you are walking on a smooth, curved mountain (a manifold). At any exact point you stand, if you look straight ahead, left, or right, you are looking along a flat plane that perfectly grazes the mountain at your feet. That flat plane is the *"tangent space"*. The direction sticking straight up into the sky, perpendicular to your flat plane, is the *"normal"* vector.

1.1 Formal Definition

Definition 12.13 (*Tangent and Normal Vectors*): Let $M \subset \mathbb{R}^n$ be a d-dimensional C^1 submanifold. For a given point $p \in M$, we say that a vector $\tau \in \mathbb{R}^n$ is *"tangent"* to M at p if there exists a sequence $p_k \in M$ with $p_k \to p$, $p_k \neq p$, and a sequence of positive numbers r_k converging to zero such that

$$\lim_{k\to\infty} \frac{p_k - p}{r_k} = \tau.$$

The set of all tangent vectors to M at p is called the *"tangent space"* of M at p and is denoted by

$$T_pM := \{\tau \in \mathbb{R}^n \mid \tau \text{ is } \textit{"tangent"} \text{ to } M \text{ at } p\}.$$

Furthermore, we say that a vector $\nu \in \mathbb{R}^n$ is *"normal"* (i.e., perpendicular) to M at p if

$$\tau \cdot \nu = 0 \quad \text{for all } \tau \in T_pM.$$

The set of all normal vectors at p is called the *"normal space"* of M at p.

This is the formal definition of *"tangent"* and *"normal"* spaces at a point p of some given C^1 submanifold. However, as you saw in the lectures, there is a much better way to find the *"tangent space"* using partial derivatives.

1.2 Practical Computation for Parametrized Surfaces

For parametrized surfaces (essentially 2-dimensional submanifolds in $\mathbb{R}^n$), the best way to compute the *"tangent space"* and *"normal space"* at any point is using the following proposition.

Proposition 12.16 (*Tangent and Normal Vectors for Parametrized Surfaces*): Let $V \subset \mathbb{R}^2$ be open and let $\phi : V \to \mathbb{R}^3$ be a parametrized surface. Then, for every $x \in V$ and $p = \phi(x) \in M$, the following hold:

1. The *"tangent space"* to M at p is given by the span of the partial derivatives:

$$T_pM = D\phi_x(\mathbb{R}^2) = \operatorname{span}\{\partial_1\phi(x), \partial_2\phi(x)\}.$$

2. The vectors $\partial_1\phi(x)$ and $\partial_2\phi(x)$ are linearly independent and form a basis of T_pM.

3. A *"normal vector"* to M at $p = \phi(x)$ is given by the cross product $\partial_1\phi(x) \times \partial_2\phi(x)$, and a *"normal vector"* with modulus one (unit normal) is given by

$$\nu(x) := \frac{\partial_1\phi(x) \times \partial_2\phi(x)}{|\partial_1\phi(x) \times \partial_2\phi(x)|}.$$

4. Moreover, the *"normal space"* is the span of this vector:

$$N_pM = \operatorname{span}\{\nu(x)\}.$$

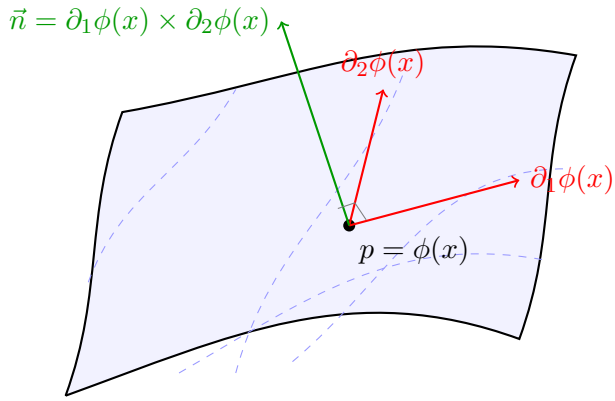

Visualization of Proposition 12.16

1.3 Examples

Let's apply this to a foundational example from the notes.

Example (*Spherical Coordinates*): Consider the parameterization of a unit sphere with a thin slice deleted (the boundary of the unit ball):

$$\phi : (0, \pi) \times (-\pi, \pi) \to \mathbb{R}^3, \quad (\theta, \varphi) \mapsto \begin{pmatrix} \sin\theta\cos\varphi \\ \sin\theta\sin\varphi \\ \cos\theta \end{pmatrix}.$$

Let $p = \phi(x) \in M$ for some $x = (\theta, \varphi) \in (0, \pi) \times (-\pi, \pi)$. The *"tangent space"* is $T_pM = D\phi_x(\mathbb{R}^2)$. We compute the partial derivatives spanning T_pM:

$$\partial_1\phi(x) = \frac{\partial}{\partial\theta}\begin{pmatrix} \sin\theta\cos\varphi \\ \sin\theta\sin\varphi \\ \cos\theta \end{pmatrix} = \begin{pmatrix} \cos\theta\cos\varphi \\ \cos\theta\sin\varphi \\ -\sin\theta \end{pmatrix},$$

$$\partial_2\phi(x) = \frac{\partial}{\partial\varphi}\begin{pmatrix} \sin\theta\cos\varphi \\ \sin\theta\sin\varphi \\ \cos\theta \end{pmatrix} = \begin{pmatrix} -\sin\theta\sin\varphi \\ \sin\theta\cos\varphi \\ 0 \end{pmatrix}.$$

A *"normal vector"* is then given by the cross product $\vec{n} = \partial_1\phi(x) \times \partial_2\phi(x)$:

$$\begin{aligned} \vec{n} &= \begin{pmatrix} \cos\theta\cos\varphi \\ \cos\theta\sin\varphi \\ -\sin\theta \end{pmatrix} \times \begin{pmatrix} -\sin\theta\sin\varphi \\ \sin\theta\cos\varphi \\ 0 \end{pmatrix} \\ &= \begin{pmatrix} (\cos\theta\sin\varphi)(0) - (-\sin\theta)(\sin\theta\cos\varphi) \\ (-\sin\theta)(-\sin\theta\sin\varphi) - (\cos\theta\cos\varphi)(0) \\ (\cos\theta\cos\varphi)(\sin\theta\cos\varphi) - (\cos\theta\sin\varphi)(-\sin\theta\sin\varphi) \end{pmatrix} \\ &= \begin{pmatrix} \sin^2\theta\cos\varphi \\ \sin^2\theta\sin\varphi \\ \cos\theta\sin\theta\cos^2\varphi + \cos\theta\sin\theta\sin^2\varphi \end{pmatrix}. \end{aligned}$$

Teacher's Note: Notice how in the z-component, we can factor out $\cos\theta\sin\theta$, leaving $(\cos^2\varphi + \sin^2\varphi)$, which simplifies to 1.

Thus, the *"normal vector"* simplifies beautifully to:

$$\vec{n} = \begin{pmatrix} \sin^2\theta\cos\varphi \\ \sin^2\theta\sin\varphi \\ \sin\theta\cos\theta \end{pmatrix} = \sin\theta\begin{pmatrix} \sin\theta\cos\varphi \\ \sin\theta\sin\varphi \\ \cos\theta \end{pmatrix}.$$

The magnitude of this vector is $|\vec{n}| = \sin\theta$. Therefore, the unit *"normal vector"* $\nu(x)$ is simply the position vector itself:

$$\nu(x) := \frac{\vec{n}}{|\vec{n}|} = \begin{pmatrix} \sin\theta\cos\varphi \\ \sin\theta\sin\varphi \\ \cos\theta \end{pmatrix} = \phi(\theta,\varphi) = \phi(x).$$

Geometrically, this makes perfect sense! For a sphere centered at the origin, the direction pointing strictly outward from the surface is exactly the same direction as the position vector of the point itself.

Example (*Teacher's Extra Practice: The Paraboloid*): To make sure you really have the hang of this, let's look at another classic surface: the paraboloid given by $z = x^2 + y^2$. We can parameterize this surface by simply using x and y as our parameters. Let $\phi(x,y) = (x, y, x^2 + y^2)^T$.

1. **Find the Tangent Vectors:**

$$\partial_x\phi(x,y) = \begin{pmatrix} 1 \\ 0 \\ 2x \end{pmatrix}, \quad \partial_y\phi(x,y) = \begin{pmatrix} 0 \\ 1 \\ 2y \end{pmatrix}$$

These two vectors form the basis of the *"tangent space"* T_pM.

2. **Find the Normal Vector:**

$$\vec{n} = \partial_x\phi \times \partial_y\phi = \begin{pmatrix} 1 \\ 0 \\ 2x \end{pmatrix} \times \begin{pmatrix} 0 \\ 1 \\ 2y \end{pmatrix} = \begin{pmatrix} -2x \\ -2y \\ 1 \end{pmatrix}$$

This vector spans the *"normal space"* N_pM at any point on the paraboloid!

Example (*Teacher's Extra Practice: The Cylinder*): Let's consider a cylinder of radius R, described by $x^2 + y^2 = R^2$. A natural parameterization uses the angle θ and the height z:

$$\phi(\theta, z) = \begin{pmatrix} R\cos\theta \\ R\sin\theta \\ z \end{pmatrix}.$$

1. **Find the Tangent Vectors:** Taking partial derivatives with respect to our parameters θ and z:

$$\partial_\theta\phi(\theta,z) = \begin{pmatrix} -R\sin\theta \\ R\cos\theta \\ 0 \end{pmatrix}, \quad \partial_z\phi(\theta,z) = \begin{pmatrix} 0 \\ 0 \\ 1 \end{pmatrix}$$

Notice that $\partial_z\phi$ points straight up (parallel to the z-axis), and $\partial_\theta\phi$ is *"tangent"* to the circular cross-section.

2. **Find the Normal Vector:** Taking the cross product:

$$\vec{n} = \partial_\theta\phi \times \partial_z\phi = \begin{pmatrix} -R\sin\theta \\ R\cos\theta \\ 0 \end{pmatrix} \times \begin{pmatrix} 0 \\ 0 \\ 1 \end{pmatrix} = \begin{pmatrix} R\cos\theta \\ R\sin\theta \\ 0 \end{pmatrix}$$

The *"normal vector"* points directly away from the z-axis in the xy-plane, completely ignoring the z-height. Its magnitude is $|\vec{n}| = \sqrt{R^2\cos^2\theta + R^2\sin^2\theta} = R$. Thus, the unit normal is simply $(\cos\theta, \sin\theta, 0)^T$.

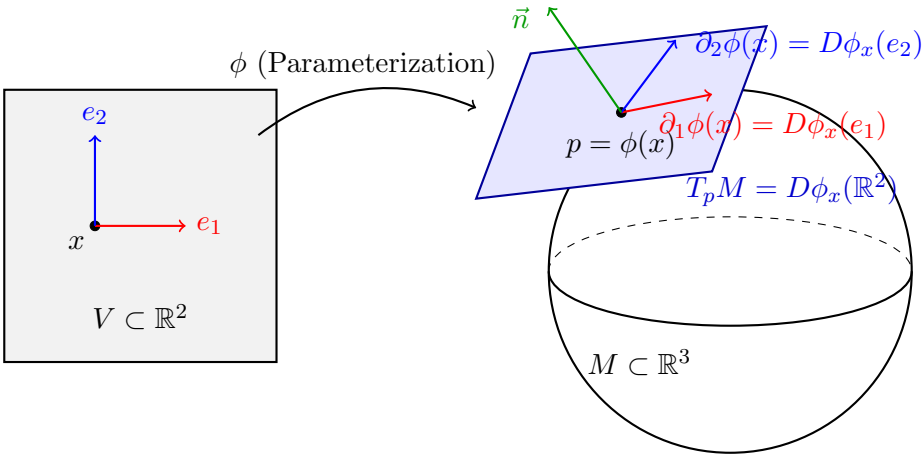

Visualization: Pushing forward the basis vectors to span the tangent space.

2 Jordan Measure

Teacher's Note: The *"Pixel"* Approach to Area
Before we look at the formal math, let's think about computer screens. How does a computer display a circle? It uses pixels! If the pixels are huge, the circle looks like a blocky mess. If the pixels are tiny, it looks perfectly smooth.

Jordan measure is exactly this idea. We want to find the volume of strange, curvy shapes by approximating them with blocky *"pixels"* (which we call *"dyadic cubes"*).

- If we take all the pixels that touch the shape (even a little bit), we get an *"outer approximation"* (an overestimate).
- If we only take the pixels that are 100% inside the shape, we get an *"inner approximation"* (an underestimate).

If we make our pixels infinitely small, and the inner and outer approximations squeeze together to the exact same number, we say the shape is *"Jordan measurable"*!

2.1 Dyadic Cubes: Intuition vs. Script

To build our grid, we use a very specific type of building block. Here is how your TA intuitively described it:

Definition (*TA's Intuitive Dyadic Cubes*): A *"dyadic cube"* of side length 2^{-p} (for some integer $p \geq 0$) is defined on a standard coordinate grid. The union of finite, same-size dyadic cubes is called a *"dyadic set"*.

For a fixed *"pixel size"* 2^{-p}, a dyadic set E in $\mathbb{R}^n$ can be represented mathematically as:

$$E = \bigcup_{l=1}^{N} 2^{-p} \left(a(l) + [0,1)^n \right),$$

where $a(l) \in \mathbb{Z}^n$ is an integer vector representing the coordinates of the bottom-left corner of each cube in the grid.

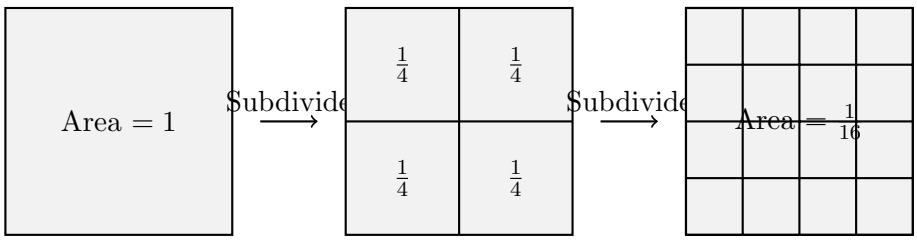

$p = 0$
This is one dyadic cube of side length $1 = 2^0$

$p = 1$
Side length $1/2 = 2^{-1}$

$p = 2$
Side length $1/4 = 2^{-2}$

Any dyadic cube can be perfectly subdivided into smaller cubes. If we want to compare two different dyadic sets that have different pixel sizes, we can always choose the smallest pixel size and subdivide the larger cubes to match.

Now, let's look at the rigorous definition from the official script:

Definition 13.1 (*Dyadic Cubes*): A *"dyadic cube"* of side length 2^{-p} ($p \in \mathbb{N}_0$) in $\mathbb{R}^n$ is a set of the form

$$Q = 2^{-p}(a + [0,1)^n),$$

where $a \in \mathbb{Z}^n$. We denote the set of all dyadic cubes of side length 2^{-p} by Ω_p.

Why half-open intervals $[0,1)^n$?
You might wonder why the definition uses a bracket and a parenthesis. If we used closed intervals $[0,1] \times [0,1]$ for our cubes, their boundaries would overlap. For example, the right edge of the left cube would be the exact same line as the left edge of the right cube.

By defining them as $[0,1)$, we mean *"include the left and bottom edges, but leave the top and right edges open"*. This ensures that every single point in $\mathbb{R}^n$ belongs to exactly *one* unique dyadic cube. No double counting!

13.2 Inner and Outer Volumes

Similar to the Riemann Integral in 1D, we define the volume (measure) of an arbitrary set $A \subset \mathbb{R}^n$ by approximating it from the outside and from the inside. First, note that the volume (or measure μ) of a single dyadic cube in $\mathbb{R}^n$ at level p is simply $\mu(Q) = 2^{-pn}$.

Here is the rigorous script definition for these approximations:

Definition 13.2 (*Inner and Outer Approximations*): Let $A \subset \mathbb{R}^n$ be a bounded set. For $p \in \mathbb{N}_0$, we define the **inner approximation** $I(A,p)$ and the **outer approximation** $O(A,p)$ by:

$$I(A,p) := \bigcup \{Q \in \Omega_p \mid \overline{Q} \subset A^\circ\},$$
$$O(A,p) := \bigcup \{Q \in \Omega_p \mid Q \cap A \neq \emptyset\}.$$

Here, $\overline{Q}$ is the closure of the cube, and A° is the interior of A.

Definition 13.3 (*Jordan Measure*): The **inner measure** and **outer measure** of A are defined as the limits of the volumes of these approximations:

$$\mu_{\text{in}}(A) := \lim_{p\to\infty} \mu(I(A,p)), \quad \text{and} \quad \mu_{\text{out}}(A) := \lim_{p\to\infty} \mu(O(A,p)).$$

A bounded set $A \subset \mathbb{R}^n$ is called **Jordan measurable** if $\mu_{\text{in}}(A) = \mu_{\text{out}}(A)$. In this case, this common value is called the Jordan measure of A, denoted by $\mu(A)$.

Teacher's Note: Bridging the Script to the TA Notes
Wow, the script's definition looks scary! But it is exactly what we drew in the TA notes (where the TA used F_i for inner and G_i for outer approximations).

- The script's p (level of subdivision) is just the TA's index i.
- The script's $O(A,p)$ is the TA's G_i. The condition $Q \cap A \neq \emptyset$ literally just means *"include the cube if it touches the set A at all."*
- The script's $I(A,p)$ is the TA's F_i. The condition $\overline{Q} \subset A^\circ$ is just a rigorous topological way of saying *"the cube must be 100% safely inside the boundaries of A."*

So whenever you see $I(A,p)$ and $O(A,p)$ on the exam, just picture the blue and red pixel grids below!

Outer Approx $O(A,1)$ **Outer Approx $O(A,2)$**

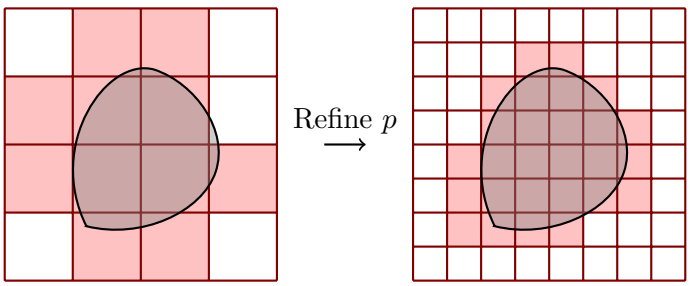

Large overestimate. $\mu(O(A,2)) \leq \mu(O(A,1))$

Inner Approx $I(A,1)$ **Inner Approx** $I(A,2)$

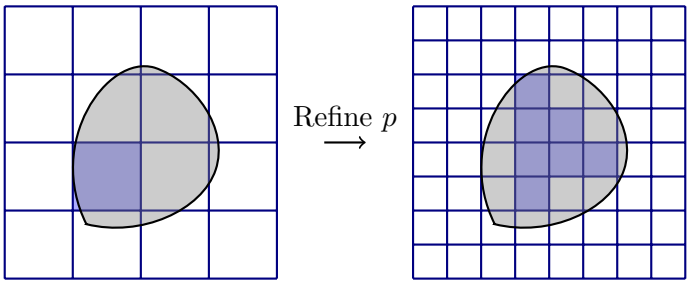

Small underestimate. $\mu(I(A,2)) \geq \mu(I(A,1))$

3 Multidimensional Integrals

One powerful way to understand the Riemann integral of a function $f : A \to \mathbb{R}$ in higher dimensions is to view it as calculating the volume *under* the graph of the function. The script formalizes this using the concept of a *"hypograph"*, which your TA sketched in the notes as the volume trapped above a domain A.

Definition 13.40 (*Hypograph*): Let $A \subset \mathbb{R}^n$ and $f : A \to [0, \infty)$. The **hypograph** of f is defined as the set

$$\Gamma_A(f) := \{(x, y) \in \mathbb{R}^n \times \mathbb{R} \mid x \in A, 0 \leq y < f(x)\} \subset \mathbb{R}^{n+1}.$$

Gemini 3.1's Note: What is a Hypograph?
Don't let the Greek prefix intimidate you! *"Hypo"* just means *"under"* (like hypothermia means under-heating). In Calc 1, when you integrated $f(x)$ from a to b, you were finding the 2D area *under* the curve. The hypograph is literally just that geometric shape: the region trapped between the floor ($z = 0$) and the ceiling ($z = f(x, y)$).

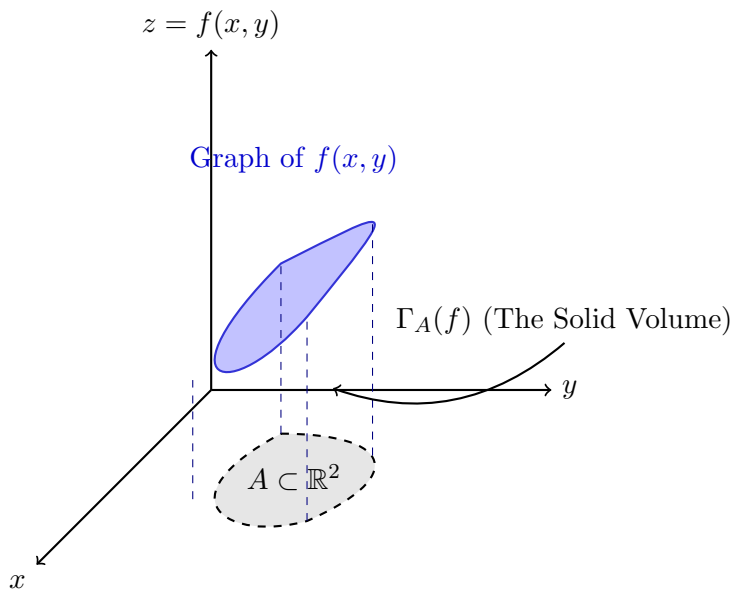

Lemma 13.42 (*Riemann Integral as Jordan Measure*): Let $A \subset \mathbb{R}^n$ be a set. A function $f : A \to [0, \infty)$ is Riemann integrable if and only if the hypograph $\Gamma_A(f)$ is Jordan measurable in $\mathbb{R}^{n+1}$. In such a case,

$$\int_A f = \mu_{n+1}(\Gamma_A(f)).$$

Corollary 13.43 (*Integrability of Continuous Functions*): Suppose that $E \subset \mathbb{R}^n$ is a Jordan measurable set and $f : \overline{E} \to [0, \infty)$ is a continuous function. Then, f is Riemann integrable over E.

TA's Survival Rule: Thanks to Corollary 13.43, in practice, nonnegative continuous functions are almost always integrable on nicely behaved (Jordan measurable) closed sets!

3.1 Normal Domains and Fubini's Theorem

Defining the integral via the hypograph is mathematically rigorous, but it doesn't help us actually calculate a number. To compute multidimensional integrals, we need to slice the domain into standard 1D integrals. We do this using **Normal Domains**.

Definition (*Normal Domains / Projectable Regions*)**:** There are two primary ways to slice a 2D region $A \subset \mathbb{R}^2$:

1. **Type I (x-normal):** The domain is bounded left/right by constants a, b, and top/bottom by functions of x:
$$A = \{(x, y) \in \mathbb{R}^2 \mid a \leq x \leq b, \text{ and } g_1(x) \leq y \leq g_2(x)\}$$

2. **Type II (y-normal):** The domain is bounded bottom/top by constants c, d, and left/right by functions of y:
$$A = \{(x, y) \in \mathbb{R}^2 \mid c \leq y \leq d, \text{ and } h_1(y) \leq x \leq h_2(y)\}$$

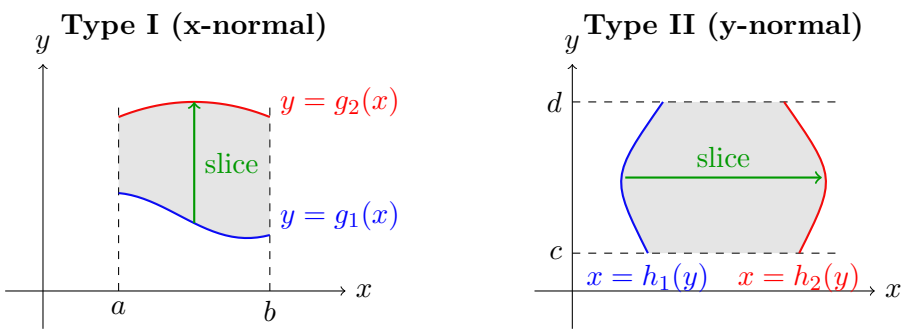

Theorem (*Fubini's Theorem for Normal Domains*)**:** Let $A \subset \mathbb{R}^2$ be a normal domain with respect to the x-axis (Type I). If $f : A \to \mathbb{R}$ is continuous, the double integral can be evaluated as an iterated integral:
$$\iint_A f(x, y)\, dA = \int_a^b \left[\int_{g_1(x)}^{g_2(x)} f(x, y)\, dy \right] dx.$$
If A is Type II, we switch the order: integrate dx first, then dy on the outside.

Gemini 3.1's Note: The *"Loaf of Bread"* Method

Fubini's theorem is the absolute backbone of Calculus 2 computations. If the integral is asking for the volume of a loaf of bread, Fubini says:

1. First, pick a specific spot along the crust (x).
2. Slice the bread vertically there, and find the area of that one 2D slice (the inner integral $\int dy$).
3. Add up all the 2D slices from the front of the loaf to the back (the outer integral $\int dx$).

Golden Rule of Fubini: The outermost integral bounds **must always be constants!** If you end up with variables in your final evaluation step, you've mixed up your order!

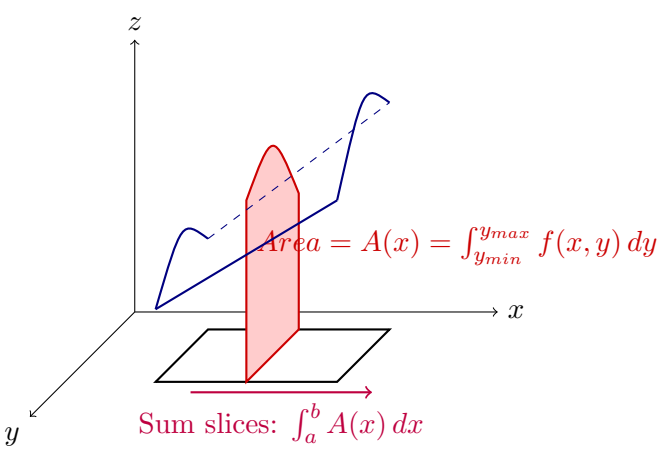

3.2 Gemini 3.1's Extra Practice Examples

To truly master this, we need to do the math. Here are 4 classic exams-style examples showing exactly how to set up and execute these integrals.

Example (*Type I Normal Domain: The Triangle*): Evaluate $\iint_A 2xy\,dA$, where A is the triangle bounded by the x-axis ($y = 0$), the line $y = x$, and the vertical line $x = 1$.

Step 1: Understand the Domain. This is a perfect Type I domain. The x-values go from $a = 0$ to $b = 1$. For any fixed x, the y-values go from the floor ($y = 0$) up to the ceiling ($y = x$).

Step 2: Set up Fubini and Integrate.

$$\begin{aligned}
\iint_A 2xy\,dA &= \int_0^1 \left(\int_0^x 2xy\,dy \right) dx \\
&= \int_0^1 \left[xy^2 \right]_{y=0}^{y=x} dx \\
&= \int_0^1 \left(x(x)^2 - x(0)^2 \right) dx \\
&= \int_0^1 x^3\,dx \\
&= \left[\frac{1}{4}x^4 \right]_0^1 = \frac{1}{4}.
\end{aligned}$$

Example (*The Classic "Switching Bounds" Trap*): Evaluate the integral:

$$I = \int_0^1 \int_y^1 e^{x^2}\,dx\,dy$$

The Problem: If you try to integrate e^{x^2} with respect to x, you will get stuck immediately. It has no elementary antiderivative!

The Solution: We must switch the order of integration. But we **cannot** just blindly swap the bounds to $\int_y^1 \int_0^1$. We have to redraw the domain.

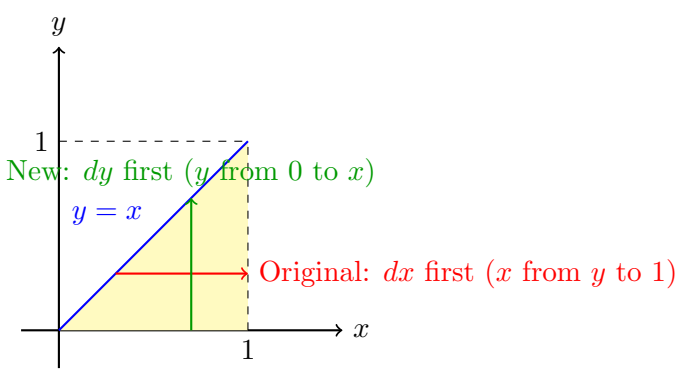

By looking at the diagram, if we want to integrate with respect to y first (vertical slices), the y-bounds go from the floor ($y = 0$) to the slanted roof ($y = x$). The outer x-bounds are constants from 0 to 1.

$$
\begin{aligned}
I &= \int_0^1 \left(\int_0^x e^{x^2}\, dy \right) dx \\
&= \int_0^1 \left[y e^{x^2} \right]_{y=0}^{y=x} dx \\
&= \int_0^1 x e^{x^2}\, dx
\end{aligned}
$$

Now, this is an easy Calc 1 substitution! Let $u = x^2$, so $du = 2x\, dx$, meaning $x\, dx = \frac{1}{2} du$.

$$
I = \int_0^1 \frac{1}{2} e^u\, du = \frac{1}{2}(e^1 - e^0) = \frac{1}{2}(e - 1).
$$

Example (*Triple Integrals and 3D Volumes*): Find the volume of the solid tetrahedron bounded by the coordinate planes ($x = 0, y = 0, z = 0$) and the plane $x + y + z = 1$.

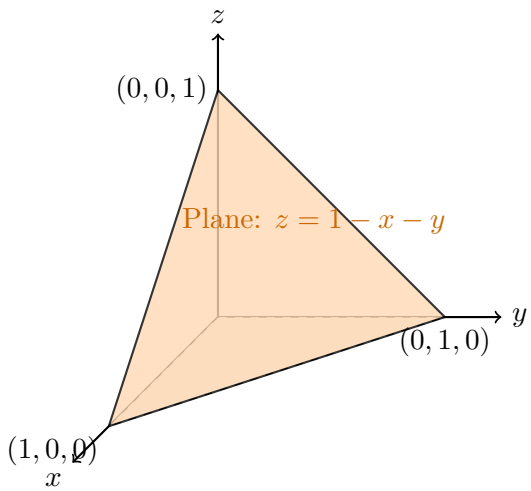

Step 1: Set the bounds.

- **Inner (z):** Travels from the floor ($z = 0$) to the slanted roof ($z = 1 - x - y$).
- **Middle (y):** Look down at the shadow on the xy-plane. It's a triangle bounded by $y = 0$ and the line $x + y = 1 \implies y = 1 - x$.
- **Outer (x):** The absolute constants on the x-axis are from $x = 0$ to $x = 1$.

Step 2: Integrate.

$$
\begin{aligned}
\text{Volume} &= \int_0^1 \int_0^{1-x} \int_0^{1-x-y} 1\, dz\, dy\, dx \\
&= \int_0^1 \int_0^{1-x} (1 - x - y)\, dy\, dx \\
&= \int_0^1 \left[(1-x)y - \frac{1}{2}y^2 \right]_0^{1-x} dx \\
&= \int_0^1 \left((1-x)(1-x) - \frac{1}{2}(1-x)^2 \right) dx \\
&= \int_0^1 \frac{1}{2}(1-x)^2\, dx \\
&= \left[-\frac{1}{6}(1-x)^3 \right]_0^1 = -\frac{1}{6}(0) - \left(-\frac{1}{6}(1) \right) = \frac{1}{6}.
\end{aligned}
$$

4 Tangent Spaces

Teacher's Note: Before we dive into the heavy formulas, let's build some intuition. Imagine you are walking on a smooth, curved mountain (a manifold). At any exact point you stand, if you look straight ahead, left, or right, you are looking along a flat plane that perfectly grazes the mountain at your feet. That flat plane is the *"tangent space"*. The direction sticking straight up into the sky, perpendicular to your flat plane, is the *"normal"* vector.

4.1 Formal Definition

Theorem 12.13 (*Tangent and Normal Vectors*): Let $M \subset \mathbb{R}^n$ be a d-dimensional C^1 submanifold. For a given point $p \in M$, we say that a vector $\tau \in \mathbb{R}^n$ is *"tangent"* to M at p if there exists a sequence $p_k \in M$ with $p_k \to p$, $p_k \neq p$, and a sequence of positive numbers r_k converging to zero such that

$$\lim_{k\to\infty} \frac{p_k - p}{r_k} = \tau.$$

The set of all tangent vectors to M at p is called the *"tangent space"* of M at p and is denoted by

$$T_pM := \{\tau \in \mathbb{R}^n \mid \tau \text{ is } \textit{"tangent"} \text{ to } M \text{ at } p\}.$$

Furthermore, we say that a vector $\nu \in \mathbb{R}^n$ is *"normal"* (i.e., perpendicular) to M at p if

$$\tau \cdot \nu = 0 \quad \text{for all } \tau \in T_pM.$$

The set of all normal vectors at p is called the *"normal space"* of M at p.

This is the formal definition of *"tangent"* and *"normal"* spaces at a point p of some given C^1 submanifold. However, as you saw in the lectures, there is a much better way to find the *"tangent space"* using partial derivatives.

4.2 Practical Computation for Parametrized Surfaces

Theorem 12.16 (*Tangent and Normal Vectors for Parametrized Surfaces*): Let $V \subset \mathbb{R}^2$ be open and let $\phi : V \to \mathbb{R}^3$ be a parametrized surface. Then, for every $x \in V$ and $p = \phi(x) \in M$, the following hold:

1. The *"tangent space"* to M at p is given by the span of the partial derivatives:

$$T_pM = D\phi_x(\mathbb{R}^2) = \text{span}\{\partial_1\phi(x), \partial_2\phi(x)\}.$$

2. The vectors $\partial_1\phi(x)$ and $\partial_2\phi(x)$ are linearly independent and form a basis of T_pM.

3. A *"normal vector"* to M at $p = \phi(x)$ is given by the cross product $\partial_1\phi(x) \times \partial_2\phi(x)$, and a *"normal vector"* with modulus one (unit normal) is given by

$$\nu(x) := \frac{\partial_1\phi(x) \times \partial_2\phi(x)}{|\partial_1\phi(x) \times \partial_2\phi(x)|}.$$

4. Moreover, the *"normal space"* is the span of this vector:

$$N_pM = \text{span}\{\nu(x)\}.$$

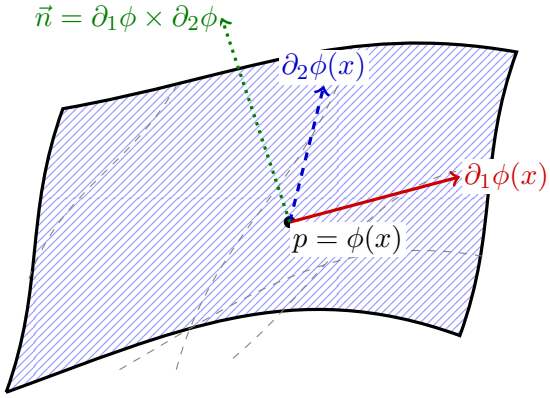

Visualization of Proposition 12.16

Example (*Spherical Coordinates*): Consider the parameterization of a unit sphere with a thin slice deleted:

$$\phi : (0, \pi) \times (-\pi, \pi) \to \mathbb{R}^3, \quad (\theta, \varphi) \mapsto \begin{pmatrix} \sin\theta\cos\varphi \\ \sin\theta\sin\varphi \\ \cos\theta \end{pmatrix}.$$

The *"tangent space"* is $T_pM = D\phi_x(\mathbb{R}^2)$. We compute the partial derivatives spanning T_pM:

$$\partial_1\phi(x) = \begin{pmatrix} \cos\theta\cos\varphi \\ \cos\theta\sin\varphi \\ -\sin\theta \end{pmatrix}, \quad \partial_2\phi(x) = \begin{pmatrix} -\sin\theta\sin\varphi \\ \sin\theta\cos\varphi \\ 0 \end{pmatrix}.$$

A *"normal vector"* is then given by the cross product $\vec{n} = \partial_1\phi(x) \times \partial_2\phi(x)$:

$$\vec{n} = \begin{pmatrix} \sin^2\theta\cos\varphi \\ \sin^2\theta\sin\varphi \\ \cos\theta\sin\theta\cos^2\varphi + \cos\theta\sin\theta\sin^2\varphi \end{pmatrix} = \sin\theta \begin{pmatrix} \sin\theta\cos\varphi \\ \sin\theta\sin\varphi \\ \cos\theta \end{pmatrix}.$$

Therefore, the unit *"normal vector"* $\nu(x)$ is simply the position vector itself $\nu(x) = \phi(\theta, \varphi)$.

Alternative Notations & Wikipedia Warning:
Depending on the textbook, you might see the tangent space denoted as T_pM, T_xM, or TM_p. The differential (Jacobian map) $D\phi_x$ is also frequently written as $d\phi_x$ or $\phi_{*,x}$ (the *"pushforward"* map). When the notes say $T_pM = D\phi_x(\mathbb{R}^2)$, they mean that the tangent plane is the image of the flat 2D plane under the linear transformation given by the Jacobian matrix.

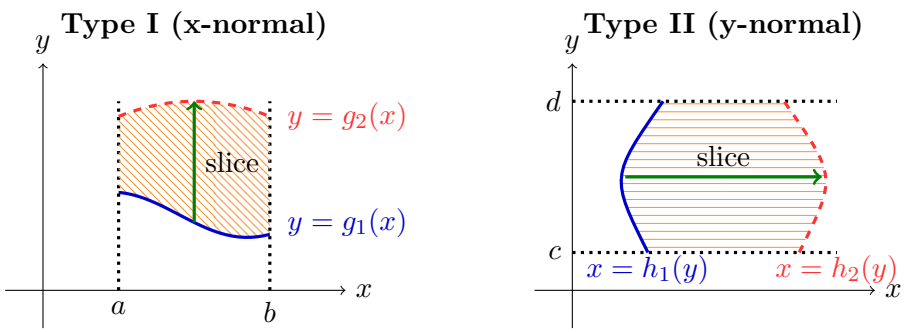

5 Jordan Measure

Teacher's Note: The *"Pixel"* Approach to Area
We want to find the volume of strange shapes by approximating them with blocky *"pixels"* (dyadic cubes).

- If we take all pixels touching the shape, we get an *"outer"* overestimate.
- If we only take pixels 100% inside the shape, we get an *"inner"* underestimate.

If we make our pixels infinitely small, and the inner and outer approximations squeeze to the exact same number, the shape is *"Jordan measurable"*!

5.1 Dyadic Cubes: Intuition vs. Script

Theorem (*TA's Intuitive Dyadic Cubes***):** A *"dyadic cube"* of side length 2^{-p} ($p \geq 0$) is defined on a standard grid. The union of same-size dyadic cubes is called a *"dyadic set"*.

$$E = \bigcup_{l=1}^{N} 2^{-p}\left(a(l) + [0,1)^n\right), \quad a(l) \in \mathbb{Z}^n$$



$p = 0$ *Side length* 1 | $p = 1$ *Side length* 1/2 | $p = 2$ *Side length* 1/4

Theorem 13.1 (*Dyadic Cubes***):** A *"dyadic cube"* of side length 2^{-p} ($p \in \mathbb{N}_0$) in $\mathbb{R}^n$ is a set of the form $Q = 2^{-p}(a + [0,1)^n)$ where $a \in \mathbb{Z}^n$. We denote the set of all dyadic cubes of side length 2^{-p} by Ω_p.

13.2 Inner and Outer Volumes

Theorem 13.2 (*Inner and Outer Approximations***):** Let $A \subset \mathbb{R}^n$ be a bounded set. For $p \in \mathbb{N}_0$, we define the **inner approximation** $I(A,p)$ and the **outer approximation** $O(A,p)$ by:

$$I(A,p) := \bigcup \{Q \in \Omega_p \mid \overline{Q} \subset A^\circ\},$$
$$O(A,p) := \bigcup \{Q \in \Omega_p \mid Q \cap A \neq \emptyset\}.$$

The **inner measure** and **outer measure** of A are defined as:

$$\mu_{\text{in}}(A) := \lim_{p\to\infty} \mu(I(A,p)), \quad \text{and} \quad \mu_{\text{out}}(A) := \lim_{p\to\infty} \mu(O(A,p)).$$

A bounded set A is **Jordan measurable** if $\mu_{\text{in}}(A) = \mu_{\text{out}}(A)$.

Outer Approx $O(A,1)$ | **Outer Approx** $O(A,2)$

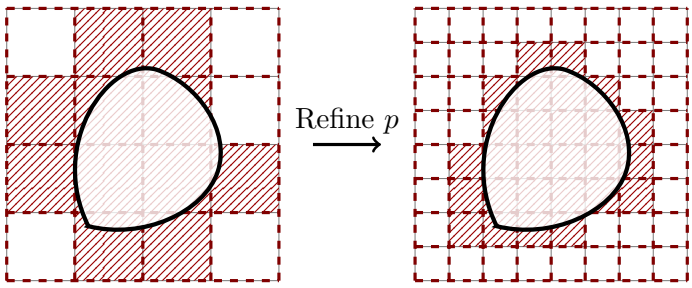

Large overestimate. | $\mu(O(A,2)) \leq \mu(O(A,1))$

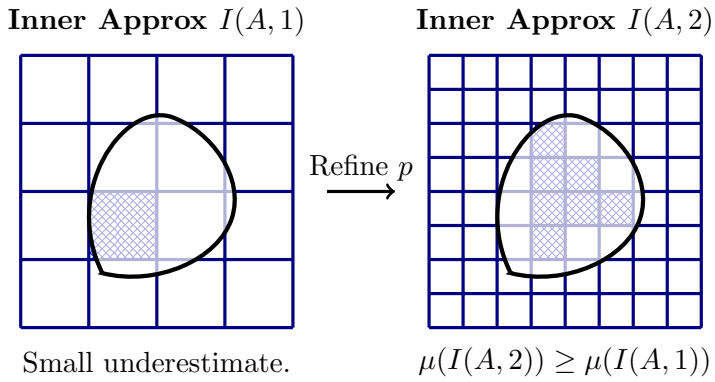

6 Multidimensional Integrals

Theorem 13.40 (*Hypograph*)**:** Let $A \subset \mathbb{R}^n$ and $f : A \to [0, \infty)$. The **hypograph** of f is defined as the set

$$\Gamma_A(f) := \{(x, y) \in \mathbb{R}^n \times \mathbb{R} \mid x \in A, 0 \leq y < f(x)\} \subset \mathbb{R}^{n+1}.$$

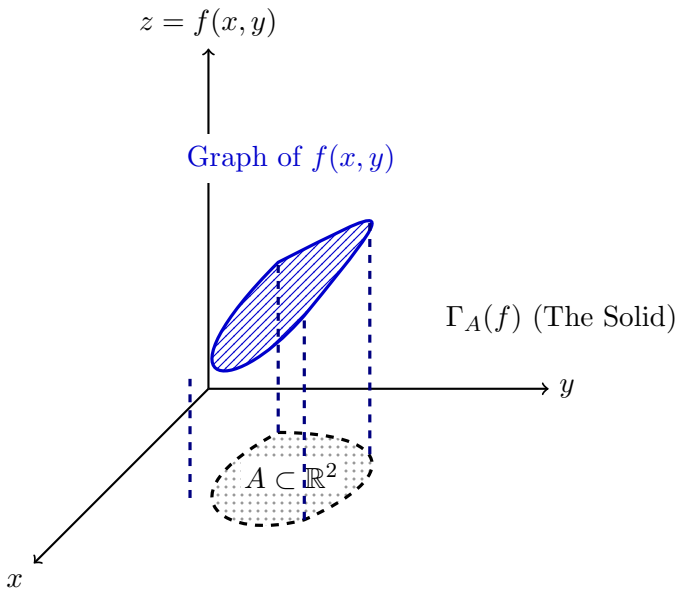

Theorem 13.42 (*Riemann Integral as Jordan Measure*)**:** Let $A \subset \mathbb{R}^n$ be a set. A function $f : A \to [0, \infty)$ is Riemann integrable if and only if the hypograph $\Gamma_A(f)$ is Jordan measurable. In such a case, $\int_A f = \mu_{n+1}(\Gamma_A(f))$.

6.1 Normal Domains and Fubini's Theorem

Theorem (*Normal Domains / Projectable Regions*)**:** There are two primary ways to slice a 2D region $A \subset \mathbb{R}^2$:

1. **Type I (x-normal):** bounded left/right by constants a, b, and top/bottom by functions of x.

2. **Type II (y-normal):** bounded bottom/top by constants c, d, and left/right by functions of y.

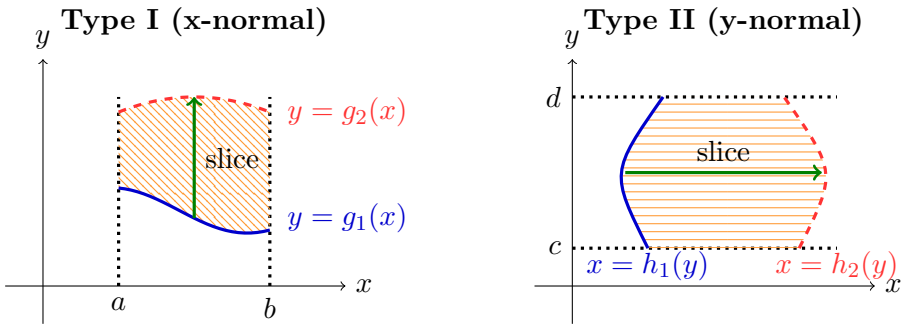

Theorem (*Fubini's Theorem for Normal Domains*)**:** For a Type I normal domain, the double integral can be evaluated as an iterated integral:

$$\iint_A f(x,y)\,dA = \int_a^b \left[\int_{g_1(x)}^{g_2(x)} f(x,y)\,dy\right] dx.$$

If A is Type II, integrate dx first, then dy on the outside. **The outermost integral bounds must always be constants!**

7 Change of Variables

When an integral is too hard to solve in Cartesian coordinates, we distort the space using a transformation mapping Φ.

Theorem 13.44 (*Change of Variables Formula*)**:** Suppose $U, V \subset \mathbb{R}^n$ are open sets and $\Phi : U \to V$ is a C^1-diffeomorphism. If $A \subset U$ is a Jordan measurable set, then

$$\int_{\Phi(A)} f(x)\,dx = \int_A f(\Phi(y))|\det J\Phi(y)|\,dy.$$

Theorem 13.45 (*Standard Coordinates*)**:** The three standard C^∞-diffeomorphisms and their Jacobians are:

- **Polar:** $\Phi(r,\theta) = (r\cos\theta, r\sin\theta)^T$. Jacobian: r.
- **Cylindrical:** $\Phi(r,\theta,z) = (r\cos\theta, r\sin\theta, z)^T$. Jacobian: r.
- **Spherical:** $\Phi(r,\theta,\varphi) = (r\sin\theta\cos\varphi, r\sin\theta\sin\varphi, r\cos\theta)^T$. Jacobian: $r^2\sin\theta$.

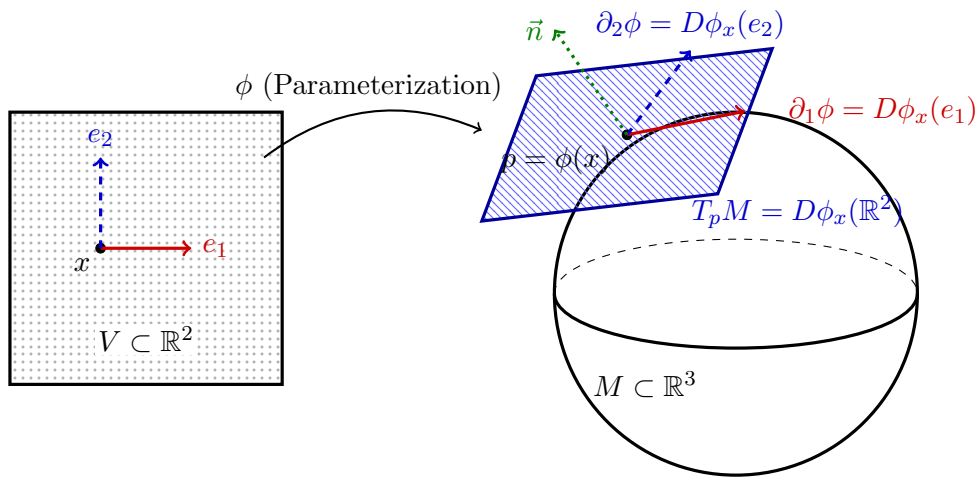

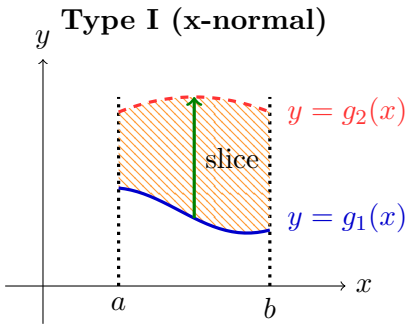
Type I (x-normal)
y
slice
$y = g_2(x)$
$y = g_1(x)$
x
a
b

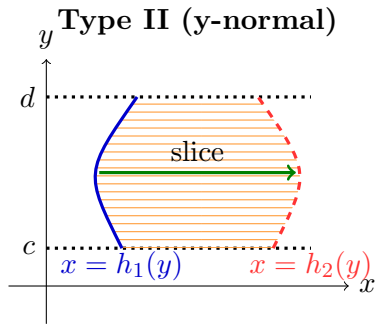
Type II (y-normal)
y
d
slice
c
$x = h_1(y)$
$x = h_2(y)$
x

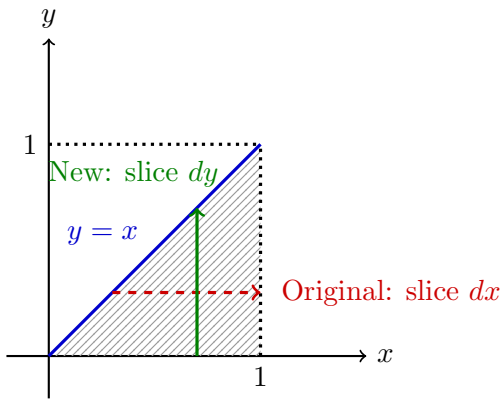
y
1
New: slice dy
$y = x$
Original: slice dx
x
1